Treasury Bills[1]

- Most marketable of all money market instruments
- Investors buy the bills at a discount from the face value
- At maturity, the government pays the investor the face value of the bill
- The difference between the purchase price and the face value is the investor's earnings
- T-bills are issued with maturities of 4, 13, 26, and 52 weeks
- T-bills are highly liquid
- The income earned on T-bills is taxable at the federal level, it is exempt from state and local taxes

[1] Language from BKM

Government Debt

- Treasury Notes and Bonds
  - Notes: up to (and including) 10 year maturities
  - Bonds: up to (and including) 30 year maturities
- Treasury Inflation Protected Securities (TIPS).
  - Principal adjusted for changes in the CPI
  - Marked with a trailing "i" in quote sheets
- Municipal Bonds.
  - Issued by state and local governments to finance capital improvement projects (e.g. roads, schools, parks).
  - Interest income is exempt from state and local taxation.
- Federal Agency Debt.
  - Bonds issued by Government Sponsored Enterprises (GSEs) to finance purchase of consumer debt
  - Most are home-mortgage-related: FNMA ("Fannie"), FHLMC ("Freddie"), GNMA ("Ginnie")

Bond Prices, Yields, and Arbitrage

- We're going to study the yield curve
- Specifically, we're going to study
  1. What the yield curve can tell us about the economy
  2. What current yields tell us about future yields
  3. How to price bonds using the yield curve

Bond Arbitrage

Bond Arbitrage

See introductory lecture

The Yield Curve

Yield Curve

- For each term (e.g. 1 month, 1 year, 30 years), the yield curve tells us the yield of the corresponding zero-coupon bond
- Example 1: if the 10-year yield is 1.61% (as read from the yield curve), then a 10-year zero coupon bond should have yield 1.61% and should trade for

$$P = \frac{100 \text{ USD}}{1 + 10 \times 0.0161} = 86.1326 \text{ USD} \tag{1}$$

- It is <u>not</u> the yield on a 10-year Treasury note (because the note's yield depends on its coupon rate)
- Example 2: if the 1-month yield is 1.55% (as read from the yield curve), then a 1-month zero coupon bond should have yield 1.55% and should trade for

$$P = \frac{100 \text{ USD}}{1 + 0.0155/12} = 99.8710 \text{ USD} \tag{2}$$

A typical yield curve

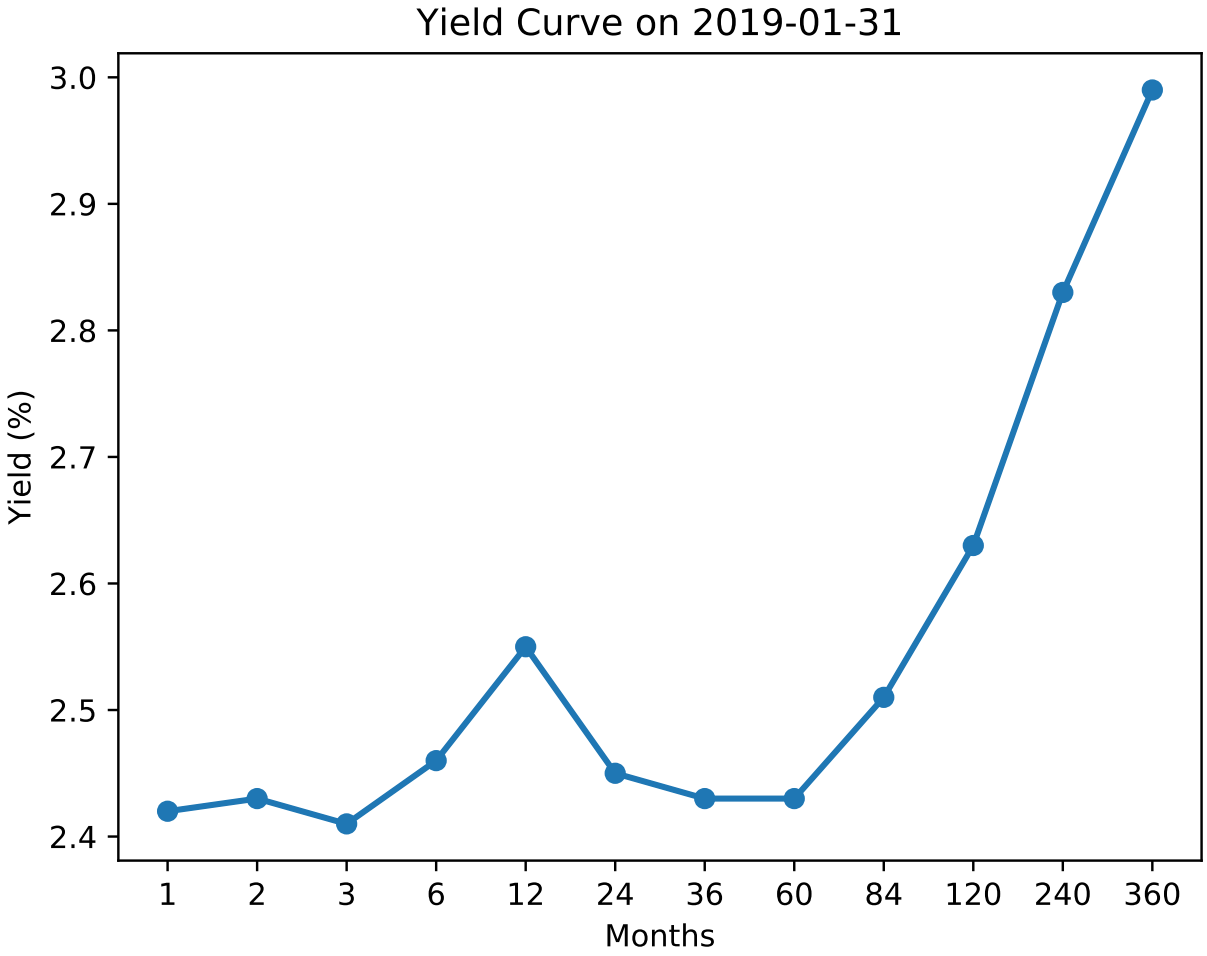

Entering a recession

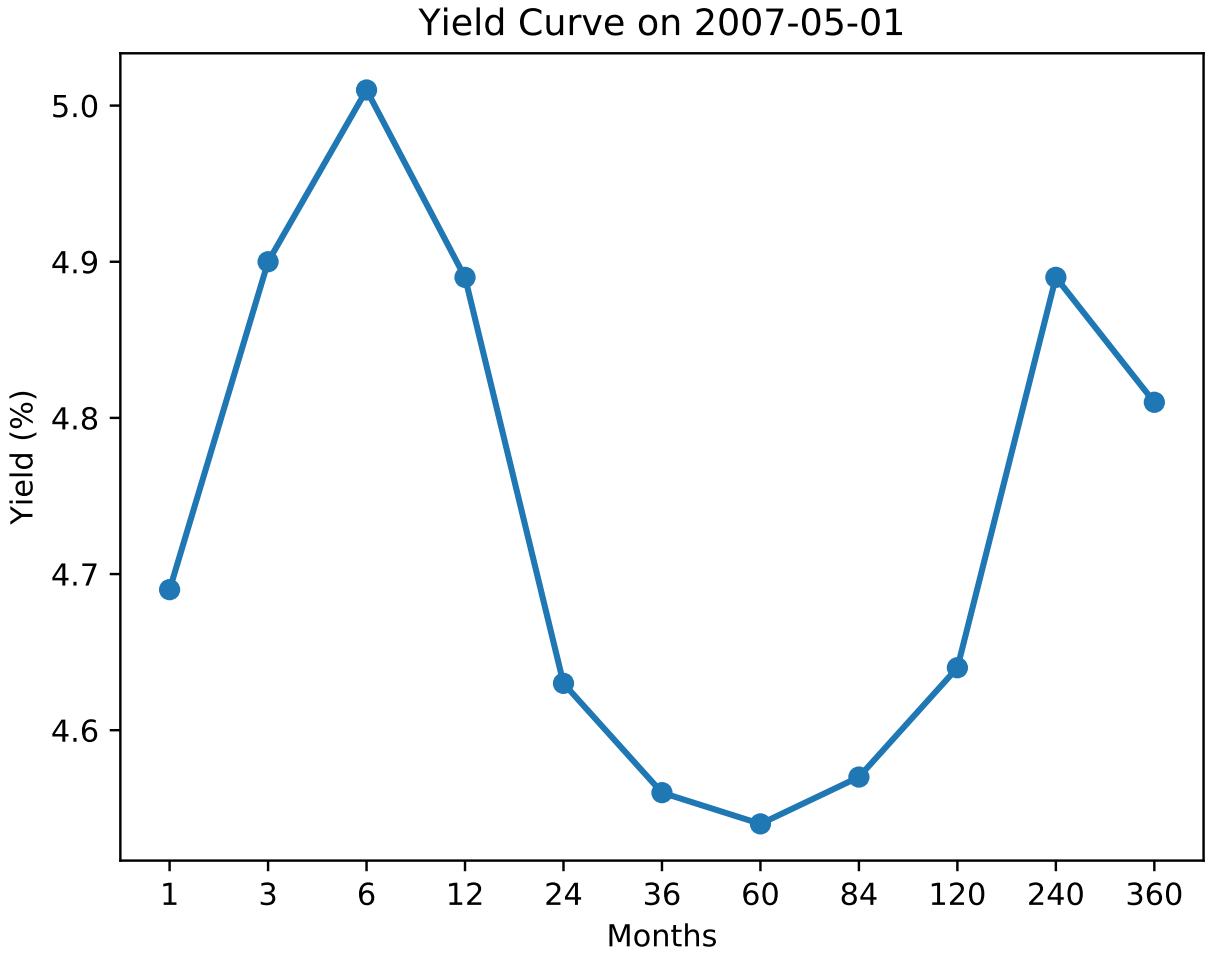

Why are there different rates?

- Why are there different rates? Why isn't there just one rate for all terms?
- The shape of the yield curve is pinned-down by something called a *stochatic discount factor*, the discussion of which is beyond the scope of this course[2]
- When conditions are expected to improve, the curve is upward sloping; when they are expected to deteriorate, the curve is downward sloping
- Application: banks borrow short and lend long

[2] The interested student should study *Optimal Control Theory*

In the time-series...

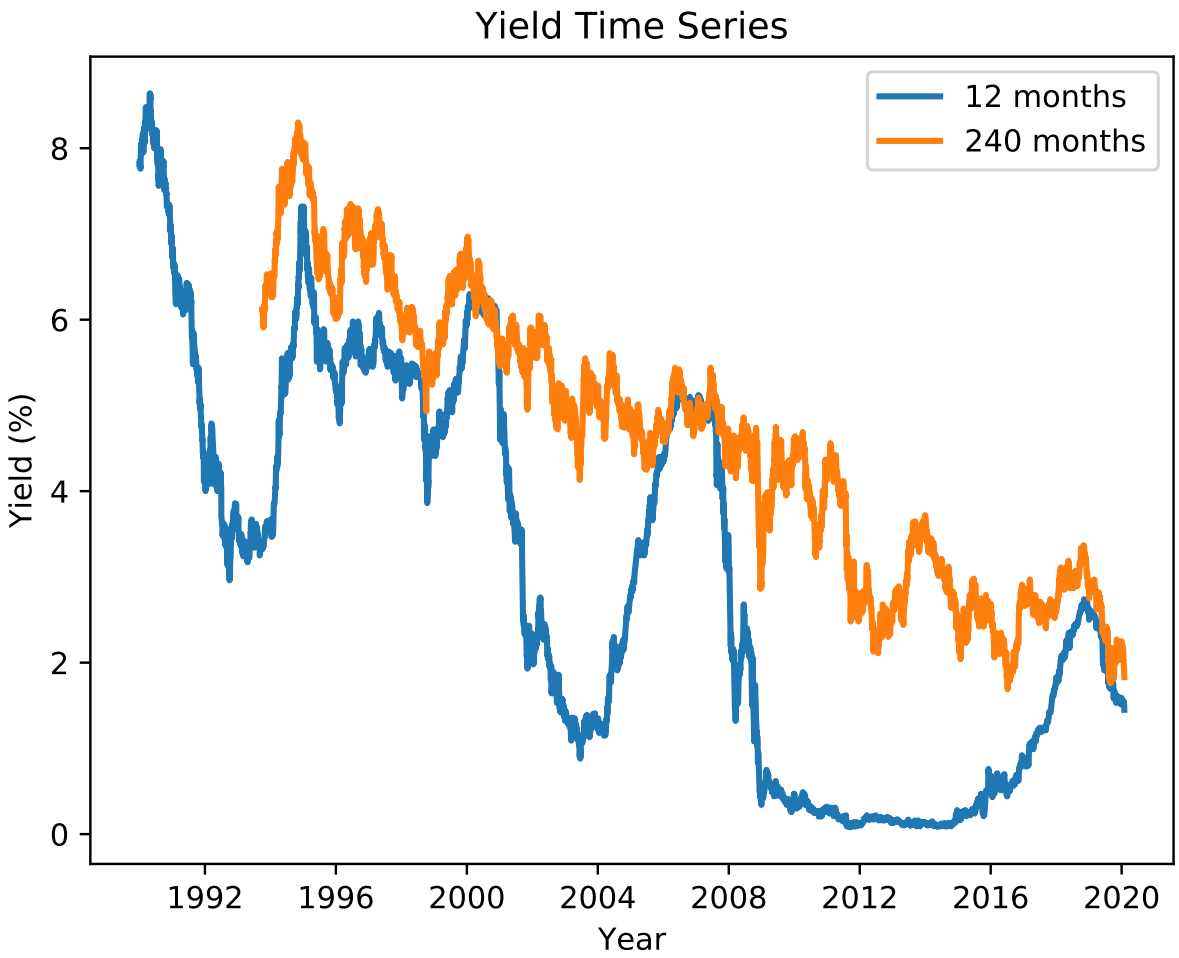

Forward Rates (One-Month)

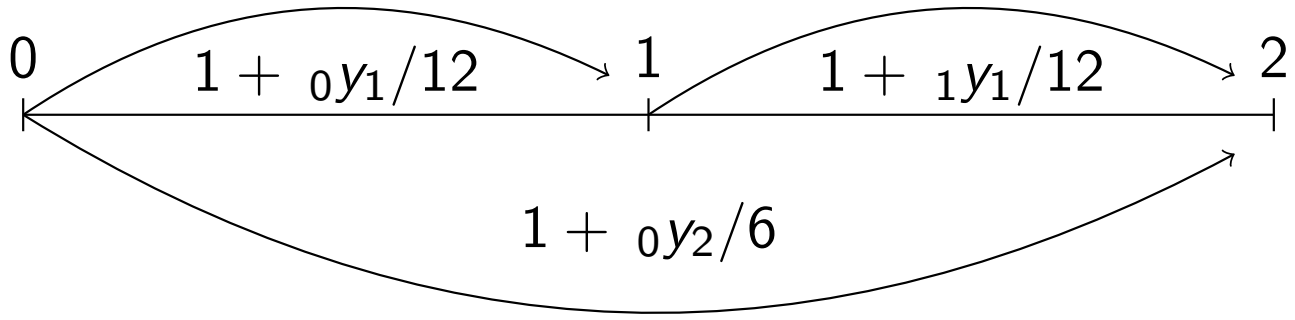

- ${}_0y_1$ is the yield today (date 0) on a 1-month zero coupon bond that matures in one month (date 1)
- ${}_0y_2$ is the yield today (date 0) on a 2-month zero coupon bond that matures in two months (date 2)
- ${}_1y_1$ is the yield in one month (date 1) on a 1-month zero coupon bond that matures in two months (date 2)

Forward Rates (One-Month)

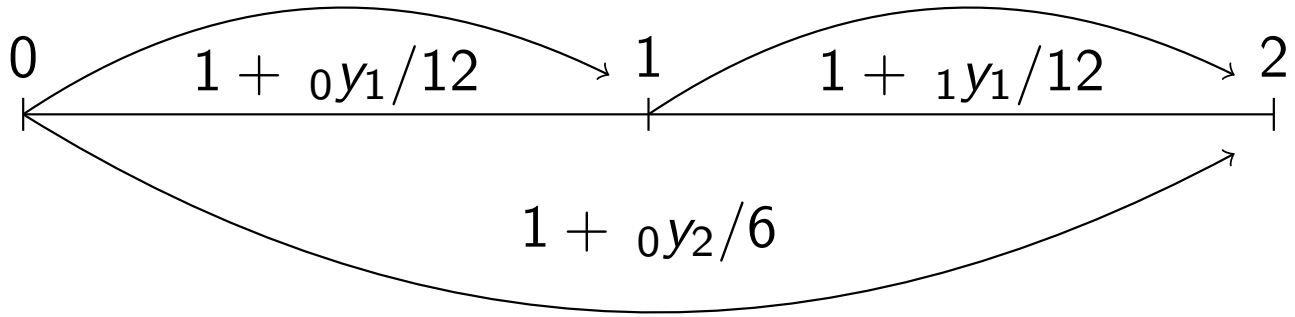

$$(1 + {}_0y_1/12)(1 + {}_1y_1/12) \overset{\text{should}}{=} 1 + {}_0y_2/6. \tag{3}$$

- The current yield curve $({}_0y_1, {}_0y_2)$ predicts the future short-term yield $({}_1y_1)$, which we call the *forward rate*
- This relationship between current yields and future yields is called the *expectations hypothesis*

Forward Rates

${}_0y_1 = 1.57\%$ and ${}_0y_2 = 1.58\%$. Is the market optimistic or pessimistic about the economy (in the short-term)? What did the market expect the 1-month yield to be in one month (${}_1y_1$)?

Forward Rates

${}_0y_1 = 1.57\%$ and ${}_0y_2 = 1.58\%$. Is the market optimistic or pessimistic about the economy (in the short-term)? What did the market expect the 1-month yield to be in one month (${}_1y_1$)?

$$ {}_1y_1 = 12\left(\frac{1 +_0 y_2/6}{1 +_0 y_1/12} - 1\right) = 1.5879\% \tag{4} $$

Forward Rates

On 2019-01-01, ${}_0y_1 = 2.40\%$ and ${}_0y_2 = 2.40\%$. What did the market expect the 1-month yield to be in one month (${}_1y_1$)?

Forward Rates

On 2019-01-01, ${}_0y_1 = 2.40\%$ and ${}_0y_2 = 2.40\%$. What did the market expect the 1-month yield to be in one month (${}_1y_1$)?

$$ {}_1y_1 = 12\left(\frac{1 +_0 y_2/6}{1 +_0 y_1/12} - 1\right) = 2.3952\% \tag{5} $$

Coupon Bonds

We can use the yield curve to compute the price of a coupon bond. A T-year coupon bond makes annual payments

0	1	2	$\cdots$	T
$-P_{\text{cpn}}$	cF_{cpn}	cF_{cpn}	$\cdots$	$cF_{\text{cpn}} + F_{\text{cpn}}$

where $c \geq 0$ is the coupon rate (APR) and F_{cpn} is the face value of the coupon bond

$$P_{\text{cpn}} \overset{\text{should}}{=} \left[\frac{cF_{\text{cpn}}}{F_{1\text{-yr}}}\right] P_{1\text{-yr}} + \left[\frac{cF_{\text{cpn}}}{F_{1\text{-yr}}}\right] P_{2\text{-yr}} + \cdots + \left[\frac{(1+c)F_{\text{cpn}}}{F_{T\text{-yr}}}\right] P_{T\text{-yr}}$$

where y is the yield (APR) and $P_{k\text{-yr}}$ is the price of a k-year zero coupon bond with face value of $F_{k\text{-yr}}$

Example

What is the price of a 3-year, 1000 USD 10% coupon bond that makes payments annual coupon payments. The 1-year yield is 1.48%, the 2-year yield is 1.41%, and the 3-year yield is 1.40%. What should the 3-year *coupon* bond trade for?

Example

What is the price of a 3-year, 1000 USD 10% coupon bond that makes payments annual coupon payments. The 1-year yield is 1.48%, the 2-year yield is 1.41%, and the 3-year yield is 1.40%. What should the 3-year *coupon* bond trade for? First, compute the prices of the zero-coupon bonds:

$$p_1 = \frac{100 \text{ USD}}{1 + 1 \times 0.0148} = 98.5416 \text{ USD} \tag{6}$$

$$p_2 = \frac{100 \text{ USD}}{1 + 2 \times 0.0141} = 97.2373 \text{ USD} \tag{7}$$

$$p_3 = \frac{100 \text{ USD}}{1 + 3 \times 0.0140} = 95.9693 \text{ USD} \tag{8}$$

Next, note that the cash-flows from the zero coupon bond are 100 USD, 100 USD, and 1100 USD.

$$p_{\text{cpn}} = 1 \times p_1 + 1 \times p_2 + 11 \times p_3 = 1251.4612 \text{ USD} \tag{9}$$

Example

What is the price of a 3-year, 1000 USD 5% coupon bond that makes payments annual coupon payments. The 1-year yield is 1.59%, the 2-year yield is 1.58%, and the 3-year yield is 1.62%. What should the 3-year *coupon* bond trade for?

Example

What is the price of a 3-year, 1000 USD 5% coupon bond that makes payments annual coupon payments. The 1-year yield is 1.59%, the 2-year yield is 1.58%, and the 3-year yield is 1.62%. What should the 3-year *coupon* bond trade for? First, compute the prices of the zero-coupon bonds:

$$p_1 = \frac{100 \text{ USD}}{1 + 1 \times 0.0159} = 98.4349 \text{ USD} \tag{10}$$

$$p_2 = \frac{100 \text{ USD}}{1 + 2 \times 0.0158} = 96.9368 \text{ USD} \tag{11}$$

$$p_3 = \frac{100 \text{ USD}}{1 + 3 \times 0.0162} = 95.3652 \text{ USD} \tag{12}$$

Next, note that the cash-flows from the zero coupon bond are 50 USD, 50 USD, and 1050 USD.

$$p_{\text{cpn}} = \frac{1}{2} \times p_1 + \frac{1}{2} \times p_2 + \left(10 + \frac{1}{2}\right) \times p_3 = 1099.0205 \text{ USD} \tag{13}$$

Yield-to-Maturity

- In our previous lectures, we saw that market participants borrow/lend at different yields *depending on the term*
- Rather than carry around an entire yield curve whenever we want to recompute the price of a bond, we summarize this information with the *yield-to-maturity* (YTM), with which you are familiar from your previous coursework
- Example: consider a 1000 USD, 30-year, 5% T-bond that makes semi-annual payments, and trades for 1011.9610 USD
- The YTM on this T-bond is the <u>one</u> rate that would make the PV of cash-flows equal to the price, namely, 4.9233%

YTM Example

Suppose that 1, 2, and 3-year, 100 USD zero-coupon bonds trade for 106.4607, 99.7684, and 93.7438 USD respectively. What should be the YTM of a 3-year, 1000 USD, 10% coupon bond that makes annual payments?

YTM Example

Suppose that 1, 2, and 3-year, 100 USD zero-coupon bonds trade for 106.4607, 99.7684, and 93.7438 USD respectively. What should be the YTM of a 3-year, 1000 USD, 10% coupon bond that makes annual payments?

First compute what the price should be.

$$p_{\text{cpn}} \overset{\text{should}}{=} 1\times 106.4607 + 1\times 99.7684 + 11\times 93.7438 = 1237.4109 \text{ USD}$$

Then we can compute the YTM using a financial calculator: NPER = 3, PMT = 100 USD, PV = 1237.4109 USD, and FV = 1000 gives us a YTM of 1.7998%.