Bond Prices, Yields, and Arbitrage

- Specifically, we're going to study the yield curve
  1. What the yield curve can tell us about the economy
  2. What current yields tell us about future yields
  3. How to price bonds using the yield curve
- We're going to focus on US Treasuries
- Unlike corporate bonds (or bonds from the developing world), US Treasuries are considered to be risk-free

Treasury Bills

- Most marketable of all money market instruments
- Investors buy the bills at a discount from the face value
- At maturity, the government pays the investor the face value of the bill
- The difference between the purchase price and the face value is the investor's earnings
- T-bills are issued with maturities of 4, 13, 26, and 52 weeks
- T-bills are highly liquid
- The income earned on T-bills is taxable at the federal level, it is exempt from state and local taxes

Government Debt

- Treasury Notes and Bonds
  - Notes: up to (and including) 10 year maturities
  - Bonds: up to (and including) 30 year maturities
- Treasury Inflation Protected Securities (TIPS).
  - Principal adjusted for changes in the CPI
  - Marked with a trailing "i" in quote sheets
- Municipal Bonds.
  - Issued by state and local governments to finance capital improvement projects (e.g. roads, schools, parks).
  - Interest income is exempt from state and local taxation.
- Federal Agency Debt.
  - Bonds issued by Government Sponsored Enterprises (GSEs) to finance purchase of consumer debt
  - Most are home-mortgage-related: FNMA ("Fannie"), FHLMC ("Freddie"), GNMA ("Ginnie")

TREASURY NEWS

Department of the Treasury • Bureau of the Fiscal Service

For Immediate Release
August 13, 2020

CONTACT: Treasury Auctions
202-504-3550

TREASURY AUCTION RESULTS

Term and Type of Security	30-Year Bond
CUSIP Number	912810SP4
Series	Bonds of August 2050
Interest Rate	1-3/8%
High Yield [1]	1.406%
Allotted at High	20.72%
Price	99.243433
Accrued Interest per $1,000	$0.07473
Median Yield [2]	1.320%
Low Yield [3]	1.150%
Issue Date	August 17, 2020
Maturity Date	August 15, 2050
Original Issue Date	August 17, 2020
Dated Date	August 15, 2020

	Tendered	Accepted
Competitive	$55,533,455,000	$25,991,895,000
Noncompetitive	$8,118,800	$8,118,800
FIMA (Noncompetitive)	$0	$0
Subtotal [4]	**$55,541,573,800**	**$26,000,013,800[5]**
SOMA	$15,463,573,000	$15,463,573,000
Total	**$71,005,146,800**	**$41,463,586,800**

	Tendered	Accepted
Primary Dealer [6]	$34,323,000,000	$7,354,440,000
Direct Bidder [7]	$5,236,400,000	$3,086,400,000

Treasuries

A T-year Treasury makes semi-annual payments.

0	1	2	$\cdots$	$2T$
$-P$	$cF/2$	$cF/2$	$\cdots$	$cF/2 + F$

where $c \geq 0$ is the coupon rate (APR)

$$P \overset{\text{should}}{=} \frac{cF/2}{(1+y/2)} + \frac{cF/2}{(1+y/2)^2} + \frac{cF/2}{(1+y/2)^3} + \cdots + \frac{cF/2}{(1+y/2)^{2T}} + \frac{F}{(1+y/2)^{2T}}$$
$$= \frac{cF/2}{y/2}\left(1 - \frac{1}{(1+y/2)^{2T}}\right) + \frac{F}{(1+y/2)^{2T}}$$

where y is the yield (APR).

The Life a Treasury Note

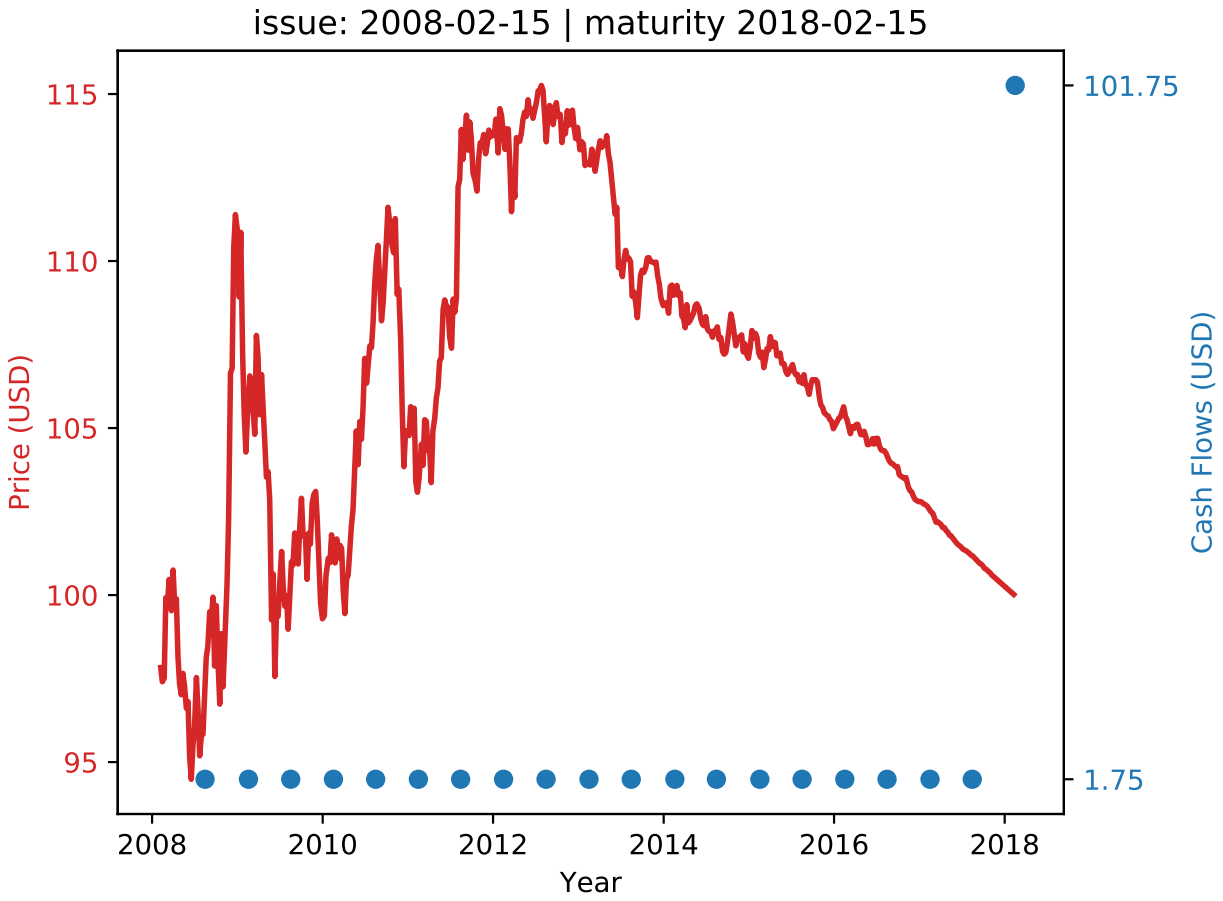

Treasury Checklist

- ✓ Yields and coupon rates are quoted as APRs, so divide them by the number of payments per year to get the per-period rate
- ✓ Multiply the number of years by the number of payments per year to get the number of periods
- ✓ The future value is the face value
- ✓ Remember: if the coupon rate is greater than (less than) the yield, the price is greater than (less than) the face value
- ✓ **Use four decimal places!**

Example

On 2012-01-31, the yield on a 100 USD 5.0-year Treasury that matured on 2015-01-31 was 0.3035%. It paid a 2.25% coupon. What should it have traded for? (Hint: the number of payments up to and including maturity is 6.0)

Example

On 2012-01-31, the yield on a 100 USD 5.0-year Treasury that matured on 2015-01-31 was 0.3035%. It paid a 2.25% coupon. What should it have traded for? (Hint: the number of payments up to and including maturity is 6.0)

$$
\begin{aligned}
P_0 \overset{\text{should}}{=} & -\mathrm{PV}(\\
& \quad \mathrm{N} = 6.0, \\
& \quad \mathrm{I/Y} = 0.3035\%/2, \\
& \quad \mathrm{PMT} = (2.25\% \times 100)/2, \\
& \quad \mathrm{FV} = 100) \\
= & \ 105.8086 \text{ USD}
\end{aligned}
$$

Example

On 2012-07-31, a 5.0-year Treasury that matured on 2013-07-31 traded for 103.1758 USD. It paid a 3.375% coupon. What was the yield? (Hint: the number of payments up to and including maturity is 2.0)

Example

On 2012-07-31, a 5.0-year Treasury that matured on 2013-07-31 traded for 103.1758 USD. It paid a 3.375% coupon. What was the yield? (Hint: the number of payments up to and including maturity is 2.0)

$$
\begin{aligned}
y_0 &\overset{\text{should}}{=} \text{RATE}(\\
&\qquad \text{N} = 2.0, \\
&\qquad \text{PV} = -103.1758, \\
&\qquad \text{PMT} = (3.375\% \times 100)/2, \\
&\qquad \text{FV} = 100) \\
&= 0.1946\%
\end{aligned}
$$

Bond Arbitrage

Arbitrage

- On 2020-01-28, the yield on a one year T-bill was 1.53%.
- What's the fair price?

$$\text{price} = \frac{100 \text{ USD}}{1 + .0153} = 98.4931 \text{ USD}$$

- Because T-bills are risk-free, we ignore margin requirements
- Assume that you can borrow from and lend to a counterparty (call it a "bank") for a year at 1.53%

Arbitrage

- What if the T-bill is trading for 97.5082 USD?
- Cash Flow Table

	2020-01-28	**2021-01-28**
Buy the T-bill	-97.5082 USD	+100 USD
Bank	+98.4931 USD	-100 USD
Net Cash Flow	+.9849 USD	0 USD

- Borrow 98.4931 USD, use 97.5082 USD of it to buy the T-bill
- In one year's time, you'll owe the bank 100 USD but the T-bill will pay you 100 USD

Arbitrage

- What if the T-bill is trading for 99.4780 USD?
- Cash Flow Table

	2020-01-28	**2021-01-28**
Sell the Bond	+99.4780 USD	-100 USD
Deposit the Proceeds	-98.4931 USD	+100 USD
Net Cash Flow	+.9849 USD	0 USD

- Your friend Eva at the bank owns the T-bill

  You: Hey Eva, can I borrow your T-bill?
  Eva: You bet. Just pay me 100 USD in one year

The Yield Curve

The Yield Curve

Yield Curve on 2020-08-28

6mo	1yr	2yr	3yr	5yr	7yr	10yr	20yr	30yr
0.11	0.12	0.14	0.16	0.28	0.51	0.74	1.29	1.52

- The yield curve can be found in many places, but the best place is directly from the Treasury (`treasury.gov/data`)
- The yield is the yield on a bond issued at par
- For example, the 30-year yield is the yield-to-maturity of a 30-year T-bond that is issued at par

A typical yield curve

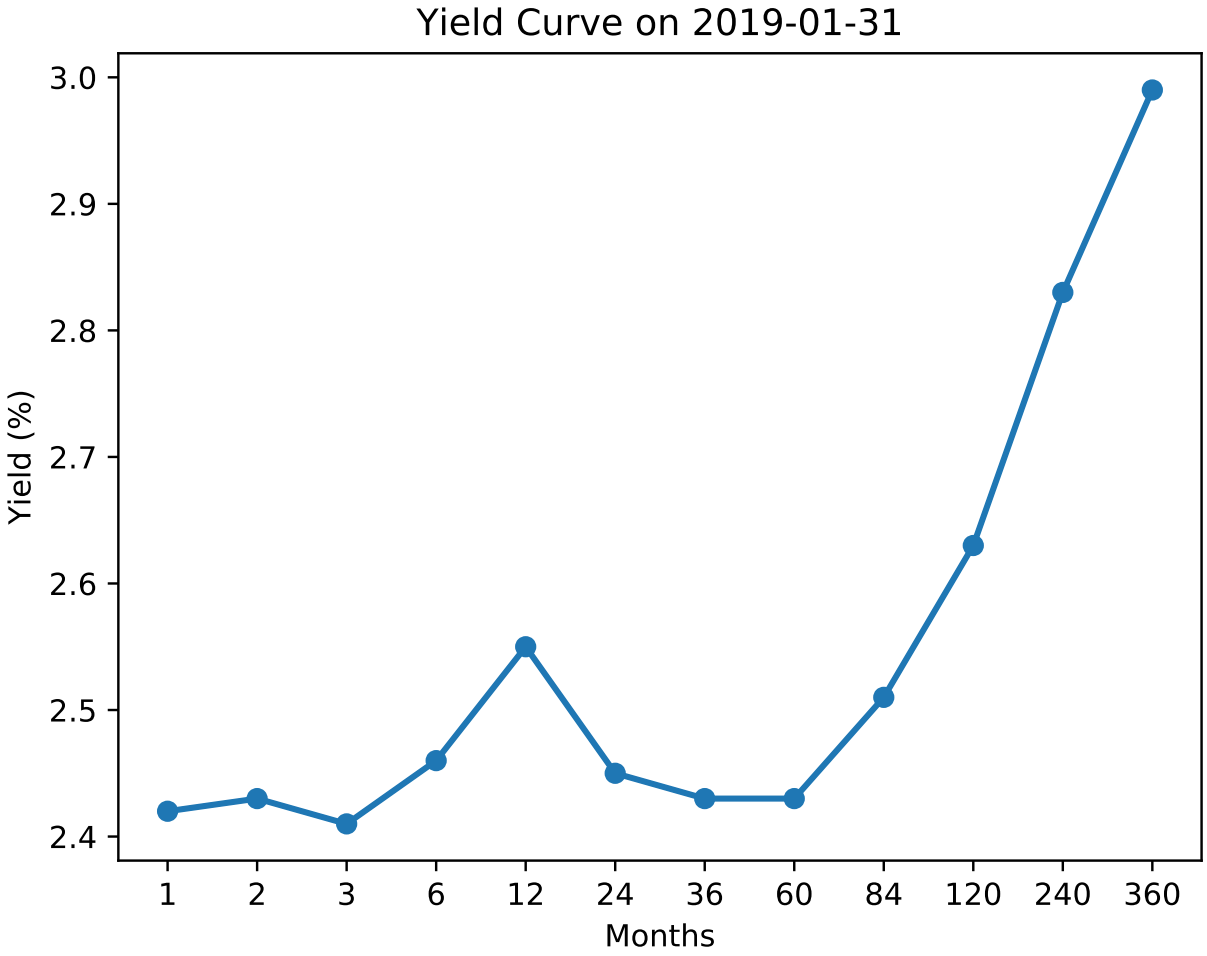

Entering a recession

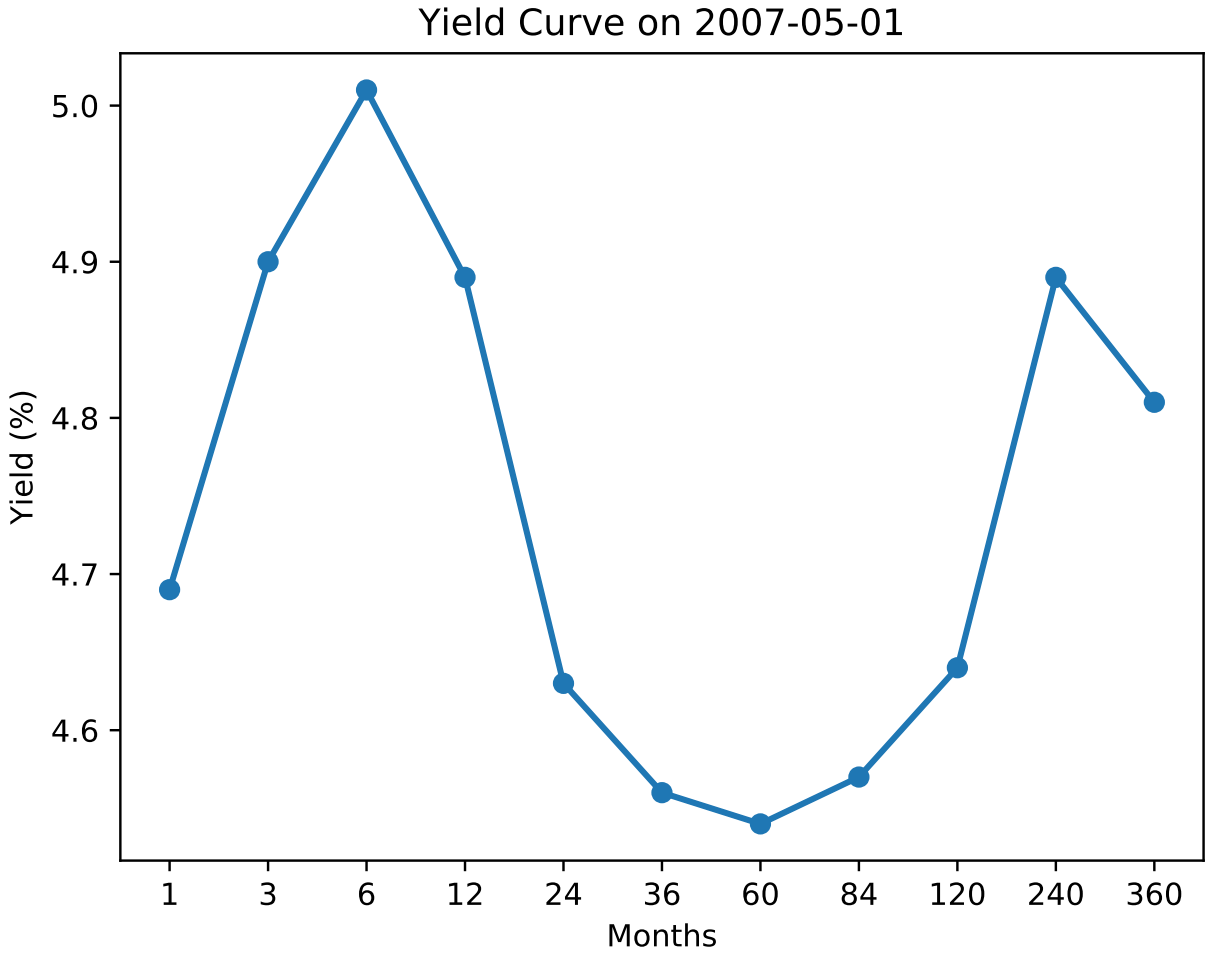

Why are there different rates?

- Why are there different rates? Why isn't there just one rate for all terms?
- When conditions are expected to improve, the curve is upward sloping; when they are expected to deteriorate, the curve is downward sloping

In the time-series...

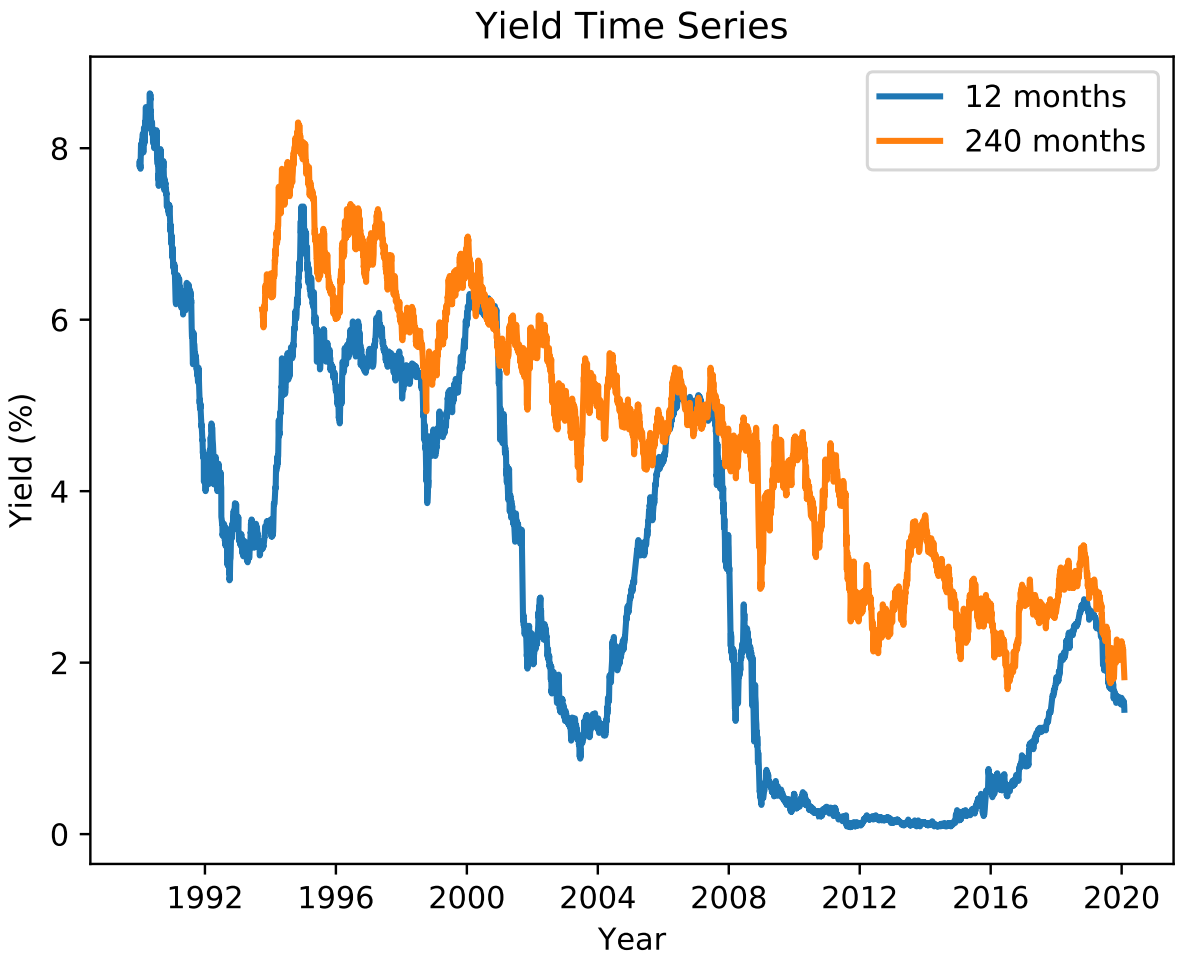

Forward Rates (One-Month)

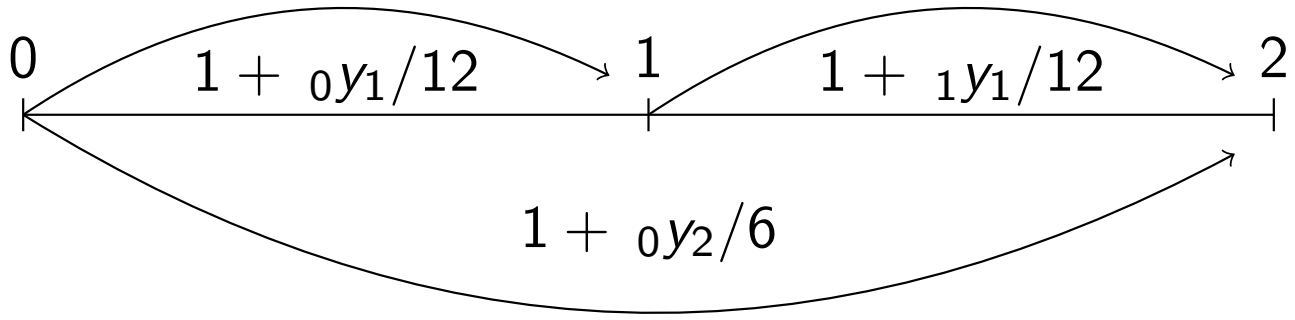

- ${}_0y_1$ is the yield today (date 0) on a 1-month zero coupon bond that matures in one month (date 1)
- ${}_0y_2$ is the yield today (date 0) on a 2-month zero coupon bond that matures in two months (date 2)
- ${}_1y_1$ is the yield in one month (date 1) on a 1-month zero coupon bond that matures in two months (date 2)

Forward Rates (One-Month)

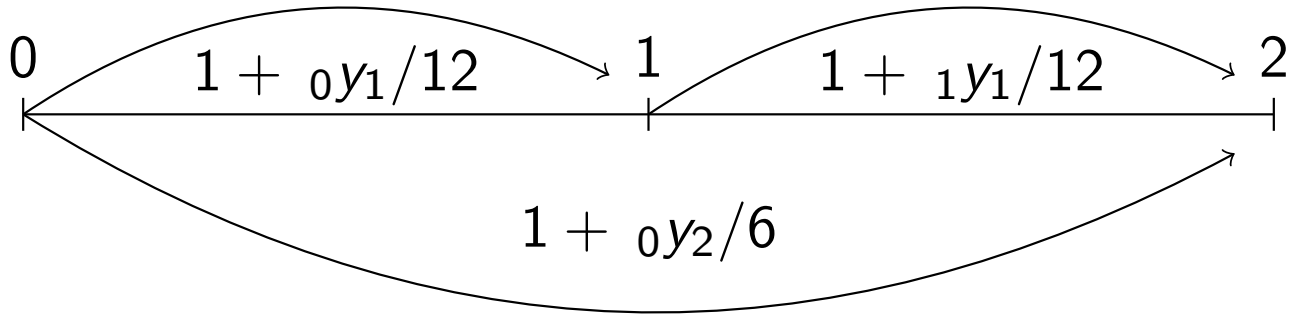

$$(1 + {}_0y_1/12)(1 + {}_1y_1/12) \overset{\text{should}}{=} 1 + {}_0y_2/6. \tag{1}$$

- The current yield curve $({}_0y_1, {}_0y_2)$ predicts the future short-term yield $({}_1y_1)$, which we call the *forward rate*
- This relationship between current yields and future yields is called the *expectations hypothesis*

Forward Rates

${}_0y_1 = 1.57\%$ and ${}_0y_2 = 1.58\%$. Is the market optimistic or pessimistic about the economy (in the short-term)? What did the market expect the 1-month yield to be in one month (${}_1y_1$)?

Forward Rates

${}_0y_1 = 1.57\%$ and ${}_0y_2 = 1.58\%$. Is the market optimistic or pessimistic about the economy (in the short-term)? What did the market expect the 1-month yield to be in one month (${}_1y_1$)?

$$ {}_1y_1 = 12\left(\frac{1 +_0 y_2/6}{1 +_0 y_1/12} - 1\right) = 1.5879\% \tag{2} $$

Forward Rates

On 2019-01-01, ${}_0y_1 = 2.40\%$ and ${}_0y_2 = 2.40\%$. What did the market expect the 1-month yield to be in one month (${}_1y_1$)?

Forward Rates

On 2019-01-01, ${}_0y_1 = 2.40\%$ and ${}_0y_2 = 2.40\%$. What did the market expect the 1-month yield to be in one month (${}_1y_1$)?

$$ {}_1y_1 = 12\left(\frac{1 +_0 y_2/6}{1 +_0 y_1/12} - 1\right) = 2.3952\% \tag{3} $$

Zero Rates

Yield Curve on 2020-08-28

Term	6mo	1yr	2yr	3yr	5yr	7yr	10yr	20yr	30yr
CMT	0.11	0.12	0.14	0.16	0.28	0.51	0.74	1.29	1.52
Zero Rate									

- We can use this information to price bonds

Example

What is the price of a 3-year, 1000 USD 10% coupon bond that makes payments annual coupon payments. The 1-year yield is 1.48%, the 2-year yield is 1.41%, and the 3-year yield is 1.40%. What should the 3-year *coupon* bond trade for?

Example

What is the price of a 3-year, 1000 USD 10% coupon bond that makes payments annual coupon payments. The 1-year yield is 1.48%, the 2-year yield is 1.41%, and the 3-year yield is 1.40%. What should the 3-year *coupon* bond trade for? First, compute the prices of the zero-coupon bonds:

$$p_1 = \frac{100 \text{ USD}}{1 + 1 \times 0.0148} = 98.5416 \text{ USD} \tag{4}$$

$$p_2 = \frac{100 \text{ USD}}{1 + 2 \times 0.0141} = 97.2373 \text{ USD} \tag{5}$$

$$p_3 = \frac{100 \text{ USD}}{1 + 3 \times 0.0140} = 95.9693 \text{ USD} \tag{6}$$

Next, note that the cash-flows from the zero coupon bond are 100 USD, 100 USD, and 1100 USD.

$$p_{\text{cpn}} = 1 \times p_1 + 1 \times p_2 + 11 \times p_3 = 1251.4612 \text{ USD} \tag{7}$$

Yield-to-Maturity (YTM)

- Rather than carry around an entire yield curve whenever we want to recompute the price of a bond, we summarize this information with the *yield-to-maturity* (YTM), with which you are familiar from your previous coursework
- Example: consider a 1000 USD, 30-year, 5% T-bond that makes semi-annual payments, and trades for 1011.9610 USD
- The YTM on this T-bond is the <u>one</u> rate that would make the PV of cash-flows equal to the price, namely, 4.9233%

YTM Example

Suppose that 1, 2, and 3-year, 100 USD zero-coupon bonds trade for 106.4607, 99.7684, and 93.7438 USD respectively. What should be the YTM of a 3-year, 1000 USD, 10% coupon bond that makes annual payments?

YTM Example

Suppose that 1, 2, and 3-year, 100 USD zero-coupon bonds trade for 106.4607, 99.7684, and 93.7438 USD respectively. What should be the YTM of a 3-year, 1000 USD, 10% coupon bond that makes annual payments?

First compute what the price should be.

$$p_{\text{cpn}} \overset{\text{should}}{=} 1\times 106.4607 + 1\times 99.7684 + 11\times 93.7438 = 1237.4109 \text{ USD}$$

Then we can compute the YTM using a financial calculator: NPER = 3, PMT = 100 USD, PV = 1237.4109 USD, and FV = 1000 gives us a YTM of 1.7998%.